Using Calculus in 1D

Exam code: 9MA0

Download PDF

Written by: Dan Finlay
Updated on 25 November 2025

Did this video help you? Yes No

Using calculus in 1D

How is calculus used in kinematics?

Help me understand

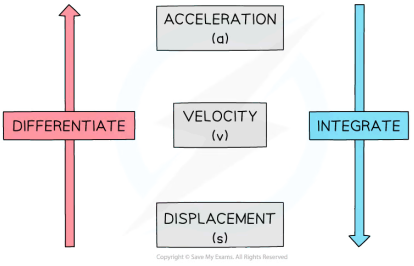

- **s**, **v** and **a** are all functions of time
- Velocity, **v**, is the rate of change of displacement, **s**, with respect to time
- Acceleration, **a**, is the rate of change of velocity, **v**, with respect to time
- **Differentiate** to go from **s** to **v** and from **v** to **a**
- **Integrate** to go from **a** to **v** and from **v** to **s**
  - There will be a **constant of integration**, c, **each time** you integrate
- The use of **calculus** can be seen using **velocity-time graphs**
  - **Acceleration** is the **gradient** which is found using **differentiation**

Stuck on something?
Ask questions and get help with exactly what you're revising.
Got it

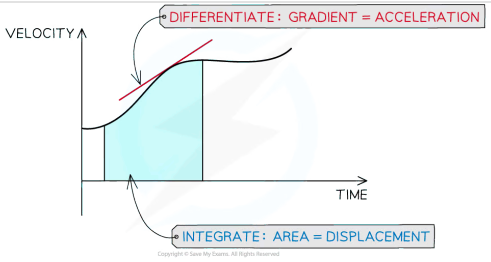

How do I find the constant of integration in kinematics?

- The value of c can be found by substituting known values, as in integration for pure maths
- Information to find c may be given in words – look out for common phrases …
  - "… **starting** from **rest** …": this means ***v* = 0** when ***t* = 0**
  - "… **initially** …" – this means ***t* = 0**

How can I use definite integration in kinematics?

- Integrating acceleration between two values of time gives the change in velocity of the object between those times
- Integrating velocity between two values of time gives the displacement of the object between those times
  - This could be **different** to the **distance** travelled between those times
  - To find the **total distance** travelled you would need to calculate the **areas above** and **below** the x-axis separately

Worked Example

The velocity, v m s^{-1}, of a particle is modelled by $v = t^3 - 4t^2 + 3t$, where t is time in seconds.

(a) Find the acceleration of the particle in terms of t.

Answer:

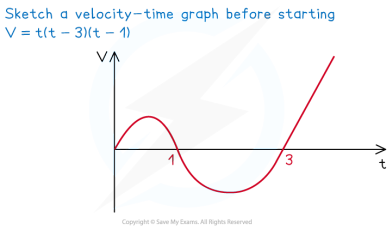

$$a = \frac{d}{dt}(t^3 - 4t^2 + 3t)$$

$$a = 3t^2 - 8t + 3$$

Acceleration $= (3t^2 - 8t + 3)\ \text{ms}^{-2}$

Copyright © Save My Exams. All Rights Reserved

(b) Find the displacement of the particle, from its starting position, after 3 seconds.

Answer:

b) Identify whether to differentiate or integrate

$$s = \int v\,dt$$

$$s = \int (t^3 - 4t^2 + 3t)dt$$

$$s = \frac{1}{4}t^4 - \frac{4}{3}t^3 + \frac{3}{2}t^2 + c$$

Find "+c"

$t = 0,\ s = 0$

Initially the displacement from starting point is 0 m

$0 = 0 + c \quad \therefore c = 0$

$$s = \frac{1}{4}t^4 - \frac{4}{3}t^3 + \frac{3}{2}t^2$$

Substitute $t = 3$

$$s = \frac{1}{4}(3)^4 - \frac{4}{3}(3)^3 + \frac{3}{2}(3)^2$$

Displacement $= -\frac{9}{4}$ m

Copyright © Save My Exams. All Rights Reserved

Examiner Tips and Tricks

- Look for key words and phrases that indicate **scalar**, rather than **vector** quantities:
  - "distance …", "speed" and "magnitude of …" are **scalar**
  - Displacement, velocity, acceleration are **vectors**
- A sketch of the velocity-time graph is always helpful as you can use it to see important features such as times when the object is stationary. This is especially useful you are asked to find the **total distance** travelled.

Teacher only

New! Exclusive Teacher-Only Questions

- Fresh, expert-written questions
- Students can't access them
- Fair accurate tests - built fast

Explore in Test Builder →

Test yourself

© Copyright 2015–2026 Save My Exams Ltd. All Rights Reserved.

Neither IBO nor College Board were involved in the production of, and do not endorse, the resources created by Save My Exams.