Combinations of Transformations

Exam code: 9MA0

Download PDF

Written by: Roger B
Updated on 11 February 2026

SaveMyExams

Did this video help you? Yes No

Combinations of transformations

What are combinations of graph transformations?

- When you alter a function in certain ways, the effects on the graph of the function can be described by geometrical transformations
- In addition to single transformations, you need to be able to interpret the effects of multiple transformations applied to the same function

Help me understand
Stuck on something?
Ask questions and get help with exactly what you're revising.
Got it

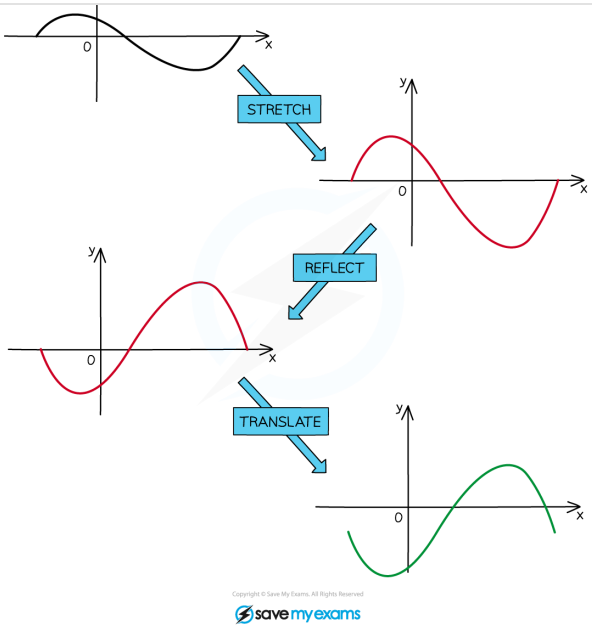

How do I combine two or more graph transformations?

- Make sure you understand the effects of individual **translations**, **stretches**, and **reflections** on the graph of a function (see the previous pages)
- When applying **combinations** of these transformations, apply them to the graph **one at a time** according to the following guidelines:
  - First apply any **horizontal** transformations **inside** the brackets (if you have more than one transformation inside the brackets, **translations** must be applied **before stretches and reflections**)
    - $y = k\mathrm{f}(\boldsymbol{a}x + \boldsymbol{b}) + c$
  - Then apply any **vertical** transformations **outside** the brackets (if you have more than one transformation outside the brackets, **stretches and reflections** must be applied **before translations**)
    - $y = \boldsymbol{k}\mathrm{f}(ax + b) + \boldsymbol{c}$

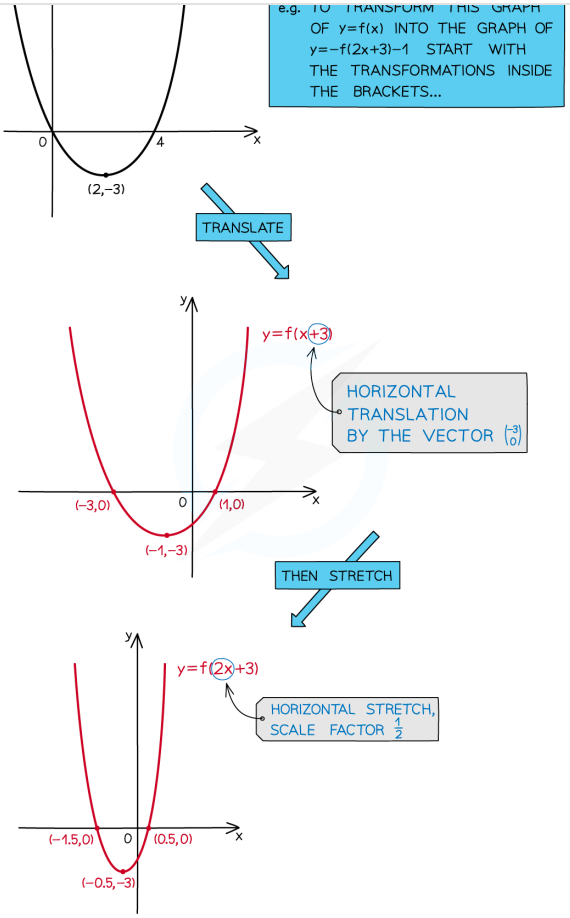

Copyright © Save My Exams. All Rights Reserved
save my exams

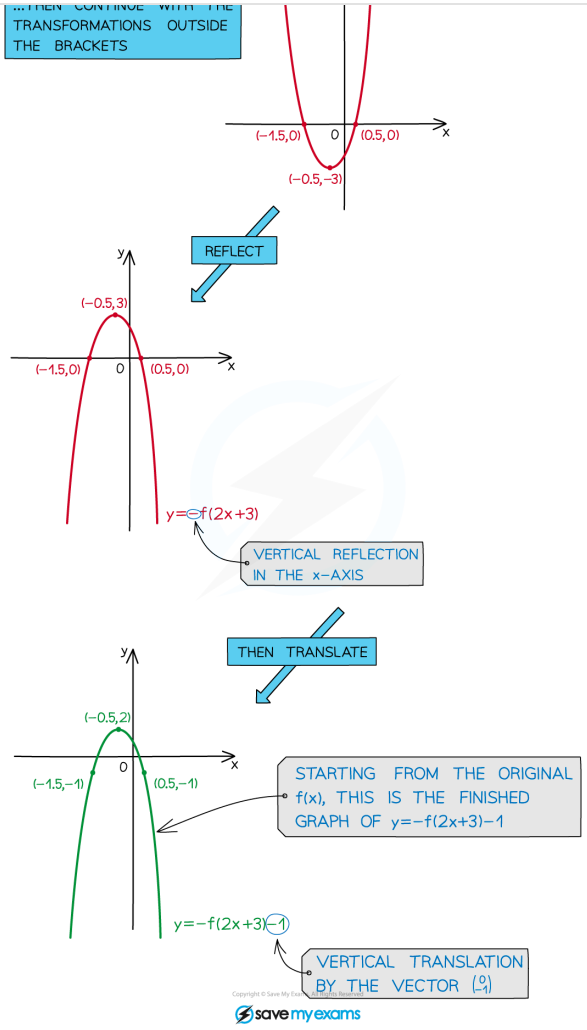

- Any asymptotes of the function are also affected by the combined transformation (perform the transformations one at a time in the same order as above)

Examiner Tips and Tricks

- Be sure to apply transformations in the correct order – applying them in the wrong order can produce an incorrect transformation.
- When you sketch a transformed graph, indicate the new coordinates of any points that are marked on the original graph.
- Try to indicate the coordinates of points where the transformed graph intersects the coordinate axes (although if you don't have the equation of the original function this may not be possible).
- If the graph has asymptotes, don't forget to sketch the asymptotes of the transformed graph as well.

Teacher only

New! Exclusive Teacher-Only Questions

Fresh, expert-written questions

Explore in Test Builder

Test yourself

Was this revision note helpful? Yes No

Previous Next

Course Study tools All topics

Resources

Learning Hub
Scholarship
Join
Past Papers
Solution Banks
Sitemap

Dashboard

Overview
Brand ambassador
Profile
Subscription
Settings
Log out

Company

About us
Exam Specificity
Content Quality
Promotions
Jobs
Terms
Privacy
Cookie Policy
Help and Support

Subjects

Biology
Chemistry
Physics
Maths
Geography
English Literature
Psychology
All Subjects