# Angles in Quadrilaterals

Exam code: 0607

Download PDF

**Written by:** Jamie Wood
**Reviewed by:** Dan Finlay
Updated on 18 February 2026

## Angles in quadrilaterals

### What are the angle properties of quadrilaterals?

- The **four** interior angles inside any quadrilateral **add up to 360°**
- If the quadrilateral is a **square** or a **rectangle** then all the angles are equal to **90°**
- You can use any **symmetries** of the quadrilateral to identify other equal angles
  - For a **parallelogram** or **rhombus**, **opposite angles** are **equal**
  - For a **kite, one pair** of **opposite angles** are **equal**

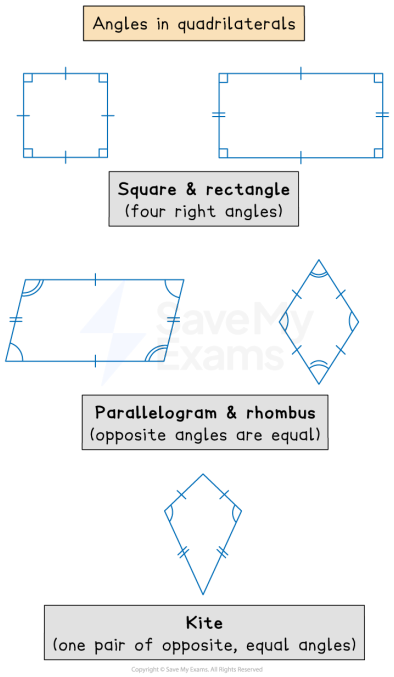


Help me understand

Stuck on something?
Ask questions and get help with exactly what you're revising.
Got it

### Examiner Tips and Tricks

Find all the missing angles that you can using the angles that are given to you in a question

## Worked Example

The diagram below shows an irregular quadrilateral. Find the value of $y$.

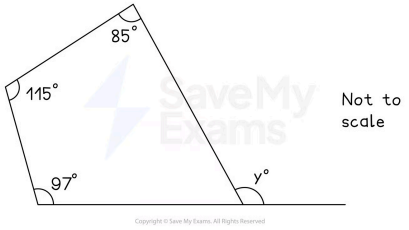


**Answer:**

First, add together the three given angles

$$97 + 115 + 85 = 297$$

Subtract the answer from 360°

$$360 - 297 = 63$$

Add this to the diagram

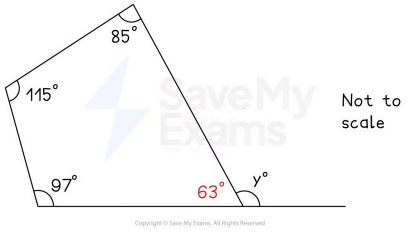


Angles on a straight line add up to 180°, so subtract the answer from 180°

$$y + 63 = 180$$
$$y = 180 - 63$$
$$y = 117$$

$$y = 117$$

Teacher only

Test your students on this in just a few clicks

- Create exam-aligned tests
- Tailor format & difficulty
- Quizzes or homework in minutes

Test yourself

Was this revision note helpful? Yes No

Previous Next

Course Study tools All topics

**Resources**

Learning Hub
Scholarship
Join
Past Papers
Solution Banks
Sitemap

**Dashboard**

Overview
Brand ambassador
Profile
Subscription
Settings
Log out

**Company**

About us
Exam Specificity
Content Quality
Promotions
Jobs
Terms
Privacy
Cookie Policy
Help and Support

**Subjects**

Biology
Chemistry
Physics
Maths
Geography
English Literature
Psychology
All Subjects

© Copyright 2015–2026 Save My Exams Ltd. All Rights Reserved.