Angles in Triangles

Exam code: 0607

Download PDF

Written by: Jamie Wood
Reviewed by: Dan Finlay
Updated on 18 February 2026

Angles in triangles

What are the angle properties of triangles?

- The **three** interior angles inside any triangle **add up to 180°**
- If the triangle is **isosceles** then **two angles will be equal**
  - These will be the **two angles opposite** the **two sides of equal length**
- If the triangle is **equilateral** then all three angles will be equal
  - Each angle will equal **60°**
- A **right-angled triangle** has one 90° angle

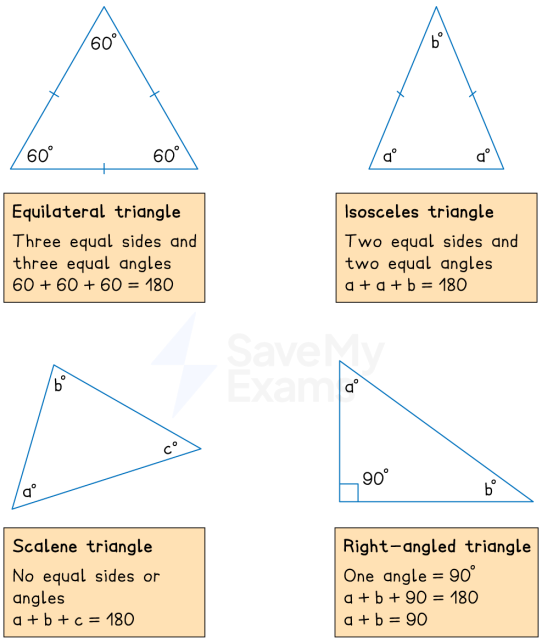

Help me understand

Stuck on something?
Ask questions and get help with exactly what you're revising.
Got it

Examiner Tips and Tricks

Find all the missing angles that you can using the angles that are given to you in a question

Worked Example

The diagram below is formed using three straight lines. Find the value of x.

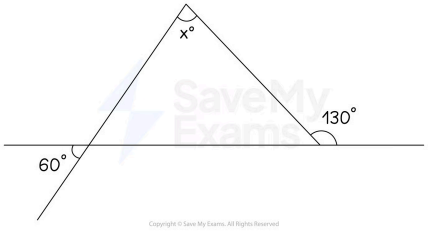

Answer:

Label the other missing angles inside the triangle

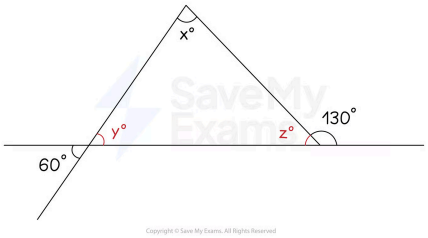

Vertically opposite angles between two intersecting lines are equal

$$y = 60$$

Angles that meet on a straight line add up to 180°

$$z + 130 = 180$$
$$z = 50$$

Interior angles in a triangle add up to 180°

$$x + 60 + 50 = 180$$
$$x + 110 = 180$$

$$x = 70$$

Teacher only

Test your students on this in just a few clicks

- Create exam-aligned tests
- Tailor format & difficulty
- Quizzes or homework in minutes

Test yourself

Was this revision note helpful? Yes No

Previous Next

Course Study tools All topics

Resources

Learning Hub
Scholarship
Join
Past Papers
Solution Banks
Sitemap

Dashboard

Overview
Brand ambassador
Profile
Subscription
Settings
Log out

Company

About us
Exam Specificity
Content Quality
Promotions
Jobs
Terms
Privacy
Cookie Policy
Help and Support

Subjects

Biology
Chemistry
Physics
Maths
Geography
English Literature
Psychology
All Subjects

© Copyright 2015–2026 Save My Exams Ltd. All Rights Reserved.