Arc Lengths & Sector Areas

Exam code: 0607

Download PDF

Written by: Naomi C
Reviewed by: Dan Finlay
Updated on 26 November 2025

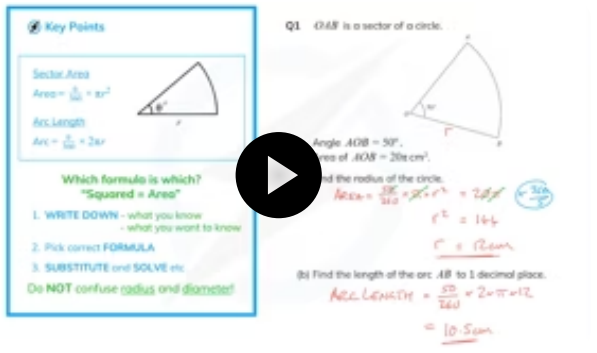

Did this video help you? Yes No

Arc Lengths & Sector Areas

What is an arc?

- An **arc** is a **part** of the **circumference** of a circle
- Two points on a circumference of a circle will create **two arcs**
  - The **smaller** arc is known as the **minor arc**
  - The **bigger** arc is known as the **major arc**

What is a sector?

- A **sector** is the part of a circle enclosed by two **radii** (radiuses) and an arc
  - A sector looks like a slice of a circular pizza
  - The curved edge of a sector is the arc
- Two radii in a circle will create **two sectors**
  - The **smaller** sector is known as the **minor sector**
  - The **bigger** sector is known as the **major sector**

What formulae do I need to know?

- You need to be able to calculate the **length of an arc** and the **area of a sector**
- The **angle** formed in a sector by the two radii is often labelled θ (the Greek letter "theta")
- You can calculate the **area of a sector** or the **length of an arc** by adapting the formulae for the area or

Help me understand

Stuck on something?
Ask questions and get help with exactly what you're revising.
Got it

- Area of a sector $= \frac{\theta}{360} \times \pi r^2$
- Arc length $= \frac{\theta}{360} \times 2\pi r$

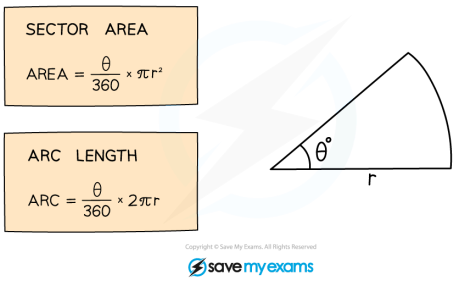

- Working with s**ector and arc formulae** is just like working with any other formula:
  - **Write down** what you know (or what you want to know)
  - Pick the correct **formula**
  - **Substitute** the values in and **solve**

How do I find the length of an arc?

- **STEP 1**
  Divide the **angle** by **360** to form a fraction
  - $\frac{\theta}{360}$
- **STEP 2**
  Calculate the **circumference** of the **full circle**
  - $2\pi r$
- **STEP 3**
  Multiply the **fraction** by the **circumference**
  - $\frac{\theta}{360} \times 2\pi r$

How do I find the area of a sector?

- **STEP 1**
  Divide the **angle** by **360** to form a fraction
  - $\frac{\theta}{360}$
- **STEP 2**
  Calculate the **area** of the **full circle**
  - πr^2
- **STEP 3**
  Multiply the **fraction** by the **area**
  - $\frac{\theta}{360} \times \pi r^2$

Examiner Tips and Tricks

fraction of the whole circle.

Worked Example

A sector of a circle is shown.

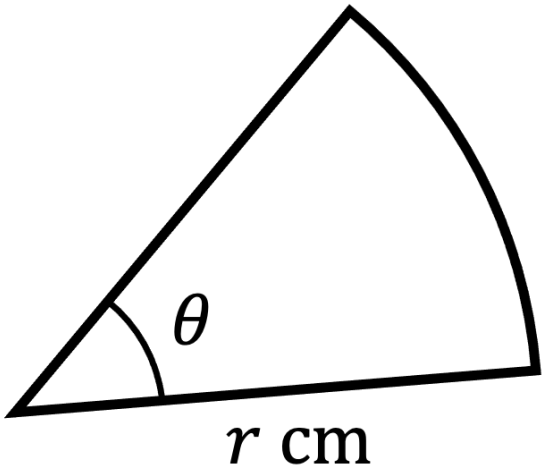

Answer:

The angle, θ, is 72° and the radius, r, is 5 cm.

(a) Find the area of the sector, giving your answer correct to 3 significant figures.

Substitute $\theta = 72°$ and $r = 5$ into the formula for the area of a sector, $A = \frac{\theta}{360}\pi r^2$

$$A = \frac{72}{360}\pi \times 5^2$$

Use a calculator to work out this value

15.70796...

Round your answer to 3 significant figures

15.7 cm²

(b) Find the length of the arc of the sector, giving your answer as a multiple of π.

Answer:

Substitute $\theta = 72°$ and $r = 5$ into the formula for the length of an arc, $l = \frac{\theta}{360}2\pi r$

$$l = \frac{72}{360} \times 2 \times \pi \times 5$$

Simplify the number part without π

Write down the final answer with π

2π cm

Teacher only

Test your students on this in just a few clicks

- Create exam-aligned tests
- Tailor format & difficulty
- Quizzes or homework in minutes

Try Test Builder

Test yourself

Was this revision note helpful? Yes No

Previous Next

Course Study tools All topics

Resources

Learning Hub
Scholarship
Join
Past Papers
Solution Banks
Sitemap

Dashboard

Overview
Brand ambassador
Profile
Subscription
Settings
Log out

Company

About us
Exam Specificity
Content Quality
Promotions

Subjects

Biology
Chemistry
Physics
Maths

© Copyright 2015–2026 Save My Exams Ltd. All Rights Reserved.
Neither IBO nor College Board were involved in the production of, and do not endorse, the resources created by Save My Exams.